Grade: 3 - International	NAFS Revision	Subject: Math
Teacher: Mr. Mohamed	2nd term no. Week 10	Date: / /2026.
Class:.....		
Name:.....		

Q1 There are 3 red cans and 5 green cans. What fraction represents the red cans?

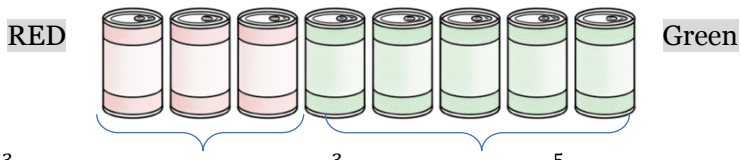

A. $\frac{3}{5}$ B. $\frac{3}{8}$ C. $\frac{5}{8}$ D. $\frac{8}{3}$

Q2 There are 5 red balls and 7 blue balls in a box. What fraction represents the red balls?

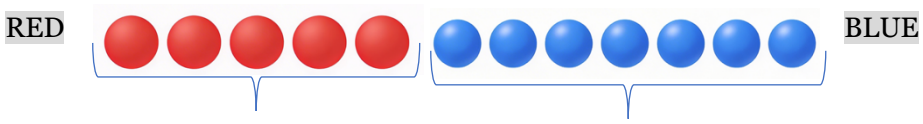

A. $\frac{7}{5}$ B. $\frac{5}{12}$ C. $\frac{5}{7}$ D. $\frac{8}{3}$

Q3 Which fraction is read as "five eighths"?

A. $\frac{7}{8}$ B. $\frac{5}{12}$ C. $\frac{5}{7}$ D. $\frac{5}{8}$

Q4 Which fraction is larger: $\frac{2}{8}$ or $\frac{2}{5}$?

A. $\frac{2}{5}$ B. $\frac{2}{8}$ C. The are Equal D. Otherwise

Q5 A ribbon is 20 cm long. What is $\frac{1}{2}$ of the ribbon?

a) 8 cm b) 6 cm c) 10 cm D) 5 cm

Q6 Which fraction is larger: $\frac{2}{5}$ or $\frac{4}{5}$?

A. $\frac{2}{5}$ B. $\frac{4}{5}$ C. The are Equal D. Otherwise

Q7 Which of the following number lines represents the fraction that indicates the number of open windows?

Q8 A pie was divided into 8 equal pieces, and 2 pieces were eaten. What fraction represents the remaining part of the pie?

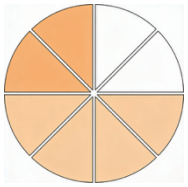

A. $\frac{7}{8}$ B. $\frac{5}{12}$ C. $\frac{5}{7}$ D. $\frac{6}{8}$

Q9 Which shape fills in the blank in the pattern below?



A. B.

C. D.

Q10 In the figure below, what number should replace the question mark?

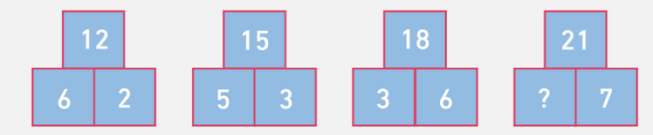

a) 2 b) 3 c) 6 D) 5

Q11 A bracelet follows this pattern: moon, sun, sun, moon, sun, sun, ... Which two beads come next?



a) moon, moon b) sun, sun, c) moon, sun D) sun, moon

Q12 Which fraction is larger: $\frac{5}{8}$ or $\frac{3}{8}$?

A. $\frac{5}{8}$ B. $\frac{3}{8}$ C. The are Equal D. Otherwise

Q13 In the figure below, what number should replace the question mark?

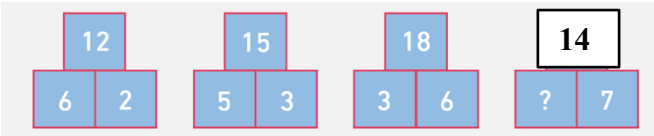

a) 2 b) 3 c) 6 D) 5

Q14 Khaled drew a three-dimensional shape with one vertex and no edges.
Which of the following represents the shape he drew?

a) Cone b) Square c) Pyramides D) Rectangle

Q15 Omar drew a three-dimensional shape with 5 vertices, 8 edges, and 5 faces. Which of the following represents the shape he drew?"

a) Cone b) Square c) Square Pyramides D) Rectangle

Q15 What is the missing number that makes the addition sentence true?

A. 1 5 5

B. 5 4 4

C. 1 4 4

D. 4 5 5

	4	1	1
+	3	2	2
	8	8	8

Q16 What is the missing number that makes the addition sentence true?

A. 1 5 5

B. 5 4 4

C. 1 4 4

D. 3 2 3

	2	4	3
+	3		
		2	2
	8	8	8

Q17 Khalid had 10 boxes. He kept two for himself and shared the remaining boxes equally among 4 friends. How many boxes did each friend get?

a) 4 b) 5 c) 6 D) 8

Q18 Sara had 14 stickers. She kept 2 for herself and shared the remaining stickers equally among 4 friends. How many stickers did each friend get?

a) 4 b) 5 c) 6 D) 8

Q19 Which of the following statements is true about the two colored rectangles?

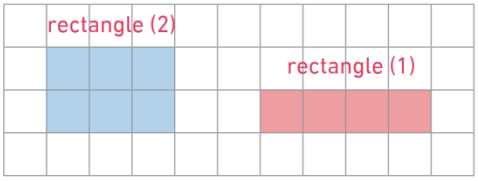

a) They have the same perimeter

b) They have the same area.

c) The perimeter of rectangle (1) is greater than the perimeter of rectangle (2).

d) The area of rectangle (1) is greater than the area of rectangle (2).

Q20 Which of the following statements is true about the two colored rectangles?

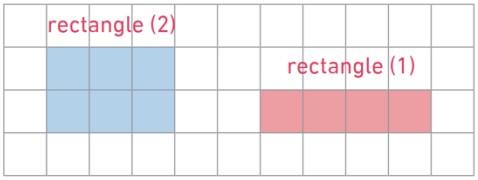

a) They doesn't have the same perimeter

b) They have the same area.

c) The perimeter of rectangle (1) is greater than the perimeter of rectangle (2).

d) The area of rectangle (2) is greater than the area of rectangle (1).

Q20 If the duration of the math class is 50 minutes and it starts at 8:15, what time does the class end?

A. 9:00 B. 9:05
C. 9:15 D. 9:50

Q21. If the English class lasts 40 minutes and it starts at 7:30, what time does the class end?

a) 8 : 00 b)) 8 : 10 c)) 7 : 50 D)) 9 : 00

Q22 In an elementary school, the morning assembly starts at 6:45 AM, and continues for 20 minutes with the broadcast and physical activities. What time do these activities end?

A. 7:00 B. 7:05
C. 7:15 D. 7:20

Q23 A garden on grid paper covers **6 squares** across and **4 squares** down with no gaps. What is the area of the garden?

A. 7 square units B. 12 square units. C. 14 square units D. 24 square units

Q24 A playground on a grid is 5 squares long and 2 squares wide. What is the perimeter?



A. 7 units B. 10 units. C. 12 units. D. 14 units

Q25 If Majid sold 45 shirts on the third day, which of the following completes the table below?

A.
B.
C.
D.

Number of shirts Majid sold over three days	
First day	
Second day	
Third day	
The Key	= 10 shirts

Q26

If Sarah sold 25 apples on Wednesday, which of the following options correctly completes her sales her sales table?

A.

B.

C.

D.

Sarah's Apple Sales Over Three Days	
Monday	
Tuesday	
Wednesday	
The Key = 10 apples	

Q27 If the bookstore received 18 new storybooks on Friday, which of the options (A, B, C, or D) correctly completes the inventory chart?

A.

B.

C.

D.

Bookstore Children's Storybook Inventory	
Wednesday	
Thursday	
Friday	
The Key = 4 books	

Q28 The picture shows the price of a painting that Layla bought. She gave the seller two 5-riyal notes. How much change will she get back?

A. 4 **B.**12 **C.**3 **D.**16

Q29 The image shows the price of an ice cream cone at the beach stand. Layla wants to buy one. She gives the seller a single 20-riyal note. How much change will she get back?

A. 4 **B.**12 **C.**3 **D.**16

Q29 Hisham and Nasser want to buy two bags. Hisham chooses the bag with the largest number printed on it, and Nasser chooses the bag with the smallest number on it. What are the two bags?

Green. - Yellow - Red - Blue

a) Blue and Green	b) Yellow and Green	c) Red and Blue	d) Yellow and Red

Q30 Ali and Omar are shopping for lunch boxes. Ali chooses the lunch box with the largest number, and Omr chooses the one with the smallest number. Which two do they choose?

A. Pink and Teal
B. Orange and Purple
C. Purple and Teal
D. Orange and Pink

Q31 In the figure below, what number should replace the question mark?

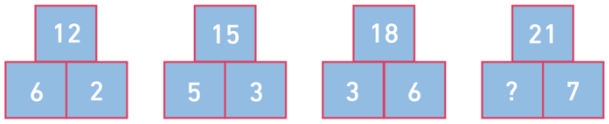

A. 6
B. 5
C. 3
D. 2

Q32 In the figure below, what number should replace the question mark?

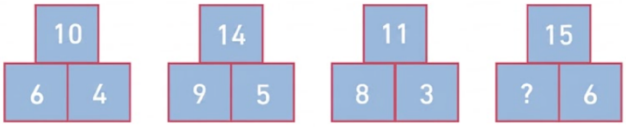

A. 7
B. 9
C. 11
D. 21

Q33 Manal drew the sailboat and she colored its sail yellow as shown below.

What is the area of the sail in square units?

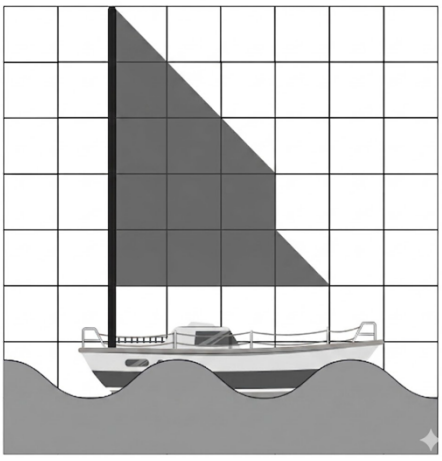

A. 13
B. 11
C. 9
D. 8